uestion 47 of 64

ne remaining: 17:35

This sign indicates ...

A. that all traffic must turn right.

B. the presence of a bridge.

C. the direction to a freeway.

Previous

Review Questions

End Test

Ne

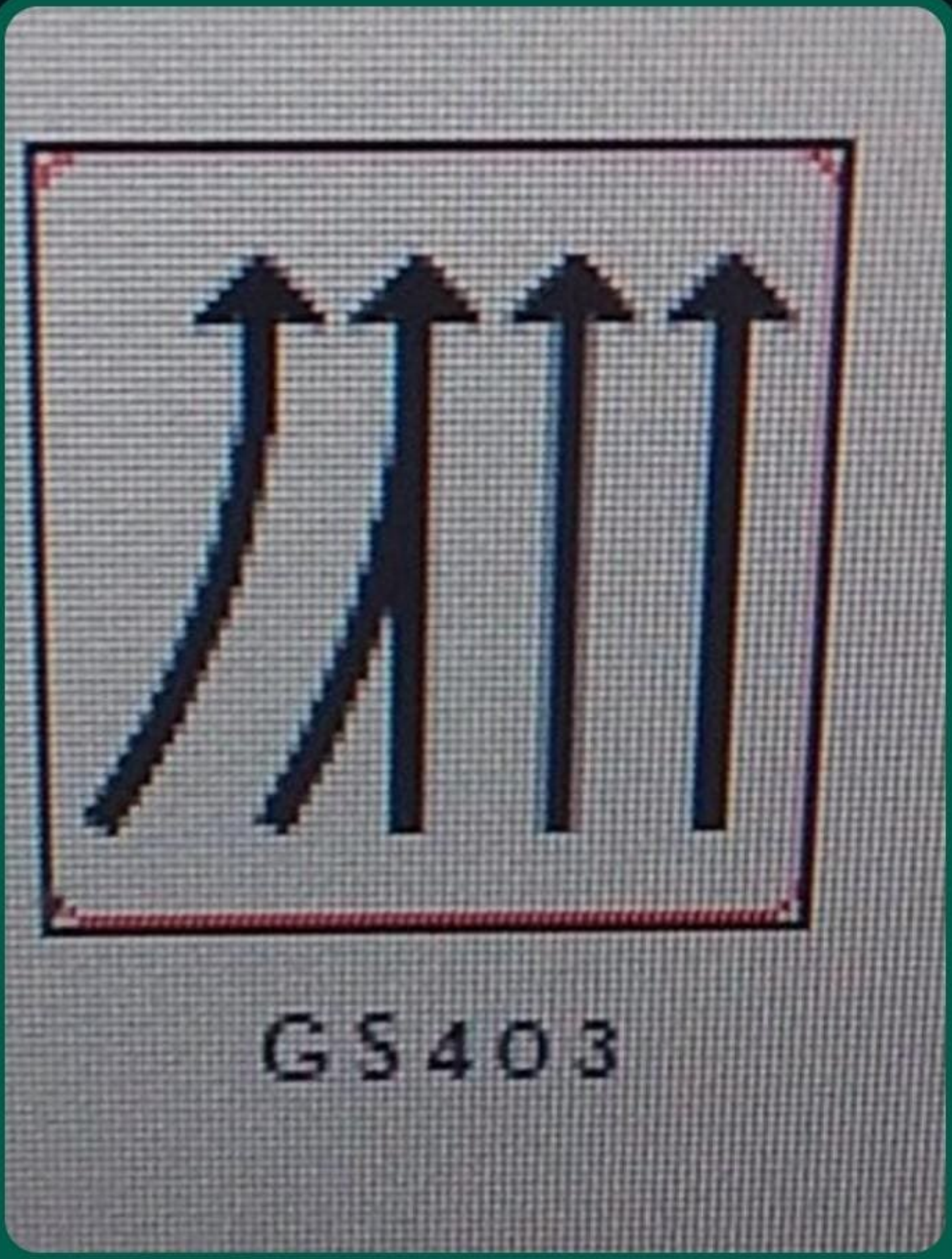


lanes are merging without reduction of any lane

stion 8 of 64

remaining: 19:22

ead lamps, rear lamps and number plate lights must be switched on ...

A. between sunset and sunrise.

B. during peak hours.

C. at all times.

Previous

Review Questions

End Test

Next

estion 30 of 64

e remaining: 18:19

Which one of the following statements is correct?

A. Pedal cycles are not permitted on a freeway.

B. Racing cycles may be ridden on a freeway during the day only.

C. Pedal cycles may only be ridden on the shoulder of the freeway.

Previous | Review Questions | End Test | Next

uestion 35 of 64

ne remaining: 18:05

Your vehicle's headlights must be switched on ...

(i) at any time of the day when you cannot see persons and vehicles 150 m in f of you.

(ii) from sunset to sunrise.

(iii) when it rains and you cannot see vehicles 100 m in front of you.

SELECT THE CORRECT COMBINATION.

A. All of the above are correct

B. Only (ii) is correct

C. Only (i) and (ii) are correct

Previous

Review Questions

End Test

Next

stion 20 of 64

remaining: 18:51

hen the driver sees this sign, he/she must ...

A. turn left at the next road if he/she drives a delivery vehicle.

B. turn left if he/she drives a goods vehicle.

C. turn left at the stop sign.

Next ▶

End Test

Review Questions

◀ Previous

estion 9 of 64

e remaining: 19:19

he use of a temporary sign implies that for some reason ...

A. circumstances on the roadway are not normal.

B. traffic has to move slowly.

C. the rules of the road do not apply.

Previous

Review Questions

End Test

Next

1 yield to oncoming traffic.2 regulatory.3 the width of the road is restricted

21:39

The following control is used to change the direction of the vehicle:

A. 6

B. 4

C. 5

estion 40 of 64

ne remaining: 17:52

Vhat type of heavy motor vehicle or combinations of motor vehicles are restric
o travel at a maximum speed of 80 km/h?

A. An articulated motor vehicle of which the gross combination mass of truck-tractor exceeds 9 000 kg.

B. Only vehicles carrying goods which belong to the government and traffic police

C. Any heavy motor vehicle carrying goods

Previous

Review Questions

End Test

Ne

estion 28 of 64

ne remaining: 18:25

Where a goods vehicle is temporarily stationary on the roadway of a public roa
s required that the driver must ...

A. display one emergency warning sign in the front and one at the back of the vehicle.

B. put out a red fire extinguisher to warn traffic.

C. display at least one emergency warning sign at the back of the vehicle.

Previous | Review Questions | End Test | Nex

uestion 43 of 64

me remaining: 17:45

What is the duty of a driver when re-filling the fuel tank with petrol or inflamm fuel?

A. The driver may not cause or allow the engine to run whilst petrol or other inflammable fuel is being transferred to the fuel tank.

B. He/she may only allow the engine to run if diesel is being transferred to the fuel tank.

C. He/she may start the engine whilst petrol or other inflammable fuel is being transferred to check if the fuel tank is full.

Previous | Review Questions | End Test | Next

check the name on notes

19:18 ✓✓

estion 36 of 64

ne remaining: 18:02

Which controls must you use when there is a sharp turn in the road?

A. 1, 3, 5, 6 and 8 only

B. 3, 6, 5, 9 and 10 only

C. 1, 3, 4, 6, 8, 9 and 10 only

Next

End Test

Review Questions

Previous

estion 12 of 64

e remaining: 19:12

hen approaching this sign, the driver knows that ...



A. a lane is added to the left of a two-way roadway.

B. the people driving on the left side of the road must turn left.

C. vehicles may be overtaken on the left side from there on.

Previous | Review Questions | End Test | Next

estion 13 of 64

e remaining: 19:09

nis sign shows the driver of the vehicle that ...

A. at the next intersection the driver must turn right.

B. the road turns to the right only.

C. there is an alternative route at the next intersection to the right.

Previous

Review Questions

End Test

Next

uestion 53 of 64

ne remaining: 17:18

This road marking tells you that ...

A. you may never park next to the road indicated by the black arrow.

B. you may not stop next to the road over there.

C. the road is under construction.

Previous

Review Questions

End Test

Next

uestion 59 of 64

me remaining: 17:04

When the robot is red and the red arrow flashes to the left as indicated in the picture, it shows you that ...

A. you don't have to stop and you may just turn left.

B. you must stop behind the line and proceed left if it is safe to do so even if the red light is on.

C. you must slow down and then turn left without yielding to other traffic.

Previous | Review Questions | End Test | Next

estion 55 of 64

e remaining: 17:13

o select a gear, you must use numbers ...

A. 6 and 8

B. 5 and 8

C. 7 and 9

Previous

Review Questions

End Test

Next

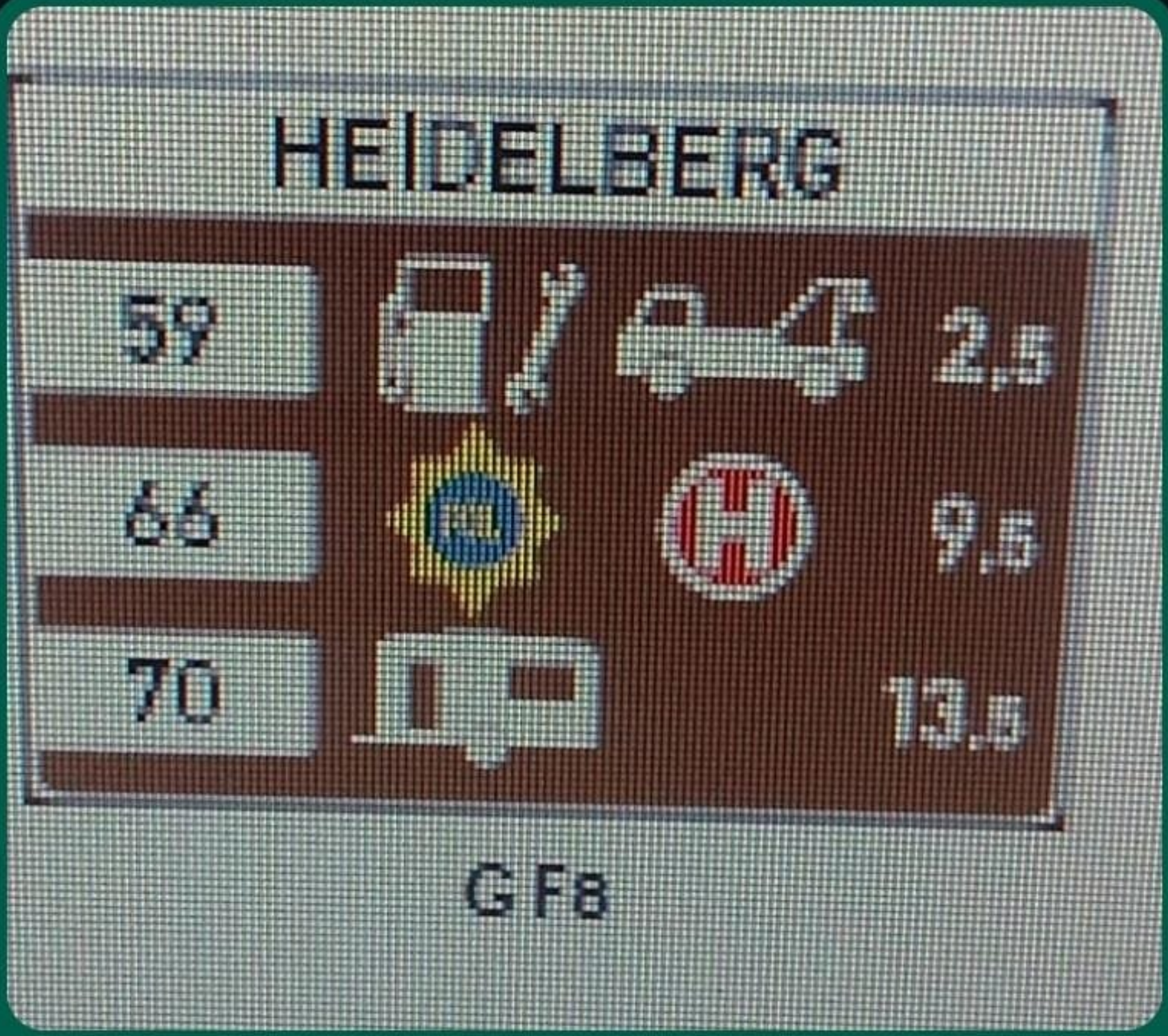


service station

21:39

uestion 38 of 64

ne remaining: 17:57

This sign shows to riders of motor cycles that ...

5301

A. they have preference in that part of the road.

B. they must use that part of the road.

C. there is parking for motor cycles there.

Previous

Review Questions

End Test

Next

uestion 32 of 64

ne remaining: 18:13

The following control is used to select the appropriate gear of the vehicle:

2C64

A. 8

B. 7

C. 6

Previous

Review Questions

End Test

Next

R320




R320-P

high occupancy or buses

estion 17 of 64

ne remaining: 18:59

The lights of your vehicle parked on a public road between sunset and sunrise need not kept lighted when the vehicle is parked ...

(i) 10 m from a lighted street lamp.

(ii) next to the roadway of the road.

(iii) in a demarcated parking area.

SELECT THE CORRECT COMBINATION

A. Only (i) and (iii) are correct

B. Only (ii) and (iii) are correct

C. All of the above are correct

Previous | Review Questions | End Test | Next

When a vehicle is travelling in the right hand lane, as shown in this sign, the driver must ...

2313

A. drive faster than or drive 60 km/h.

B. drive slower than 60 km/h.

C. overtake vehicles in the right lane that are travelling slower than 60 km/h.

estion 16 of 64

e remaining: 19:01

hen control number 9 is used, the distance it takes the driver of a motor vehicl

o stop it is ...

i) longer on a wet road than on a dry road.

(ii) longer if the vehicle is travelling at a higher speed.

(iii) longer if the vehicle is loaded.

SELECT THE CORRECT COMBINATION

2C66

A. All of the above are correct

B. None of the above are correct

C. Only (i) is correct

Previous

Review Questions

End Test

Next

uestion 33 of 64

ne remaining: 18:10

This sign shows you that ...

A. the taking of photographs is not permitted.

B. there is a photographic studio.

C. there is a camera monitoring the intersection at the traffic light.

Previous

Review Questions

End Test

Next

stion 23 of 64

remaining: 18:41

hat should a driver consider when following another vehicle?

A. The driver should follow at a safe distance and be able to stop the vehicle safely in an emergency situation or should the vehicle in front slow down or stop.

B. The driver should be able to see the rear tyres of the vehicle in front.

C. The driver should follow another vehicle keeping three car lengths behind.

Previous | Review Questions | End Test | Next

**When is it permissible to park in a ""no stopping"" area?**

A. Parking is permissible, however, only stopping is not permissible.

B. Only if no other parking area is available.

C. It is not permissible to park where stopping is not permitted.

estion 39 of 64

e remaining: 17:55

his road marking warns you that ...

A. you will have to change lanes ahead.

B. a railway line will be crossing the road at the same level.

C. you may not enter this parking area.

Previous | Review Questions | End Test | Nex

uestion 48 of 64

ne remaining: 17:32

This type of sign is known as ...

A. a regulatory sign.

B. a warning sign.

C. an information sign.

Previous

Review Questions

End Test

Next

emergency sos call station

21:39 ✓✓




Direction to leave the freeway

read all this signs

21:39

uestion 52 of 64

me remaining: 17:21

What will this road marking indicate to the driver?

A. No overtaking is permitted.

B. Lanes are reducing from the right.

C. The vehicle in the right hand lane has right of way.

Previous

Review Questions

End Test

Ne

estion 31 of 64

e remaining: 18:16

o increase or decrease the speed of the vehicle you need to use the ...

A. accelerator.

B. brakes.

C. clutch.

Previous

Review Questions

End Test

Next

estion 34 of 64

ne remaining: 18:08

This sign shows the driver that ...

9241

A. motor vehicles may not overtake goods vehicles.

B. a goods vehicle may not overtake any other vehicle.

C. there may not be any overtaking by goods vehicles.

Next

End Test

Review Questions

Previous

uestion 62 of 64

me remaining: 16:55

When seeing this sign the driver knows that he/she must ..

A. proceed on the left side of the road.

B. keep in the left lane only.

C. pass to the left of the obstacle on which the sign has been placed.

Previous

Review Questions

End Test

estion 26 of 64

e remaining: 18:31

temporary sign ...

A. has the same legal significance as a permanent sign.

B. need not be taken seriously at all times of the day.

C. is of less consequence to road users than a permanent sign.

Previous

Review Questions

End Test

Next

stion 22 of 64

remaining: 18:44

hen moving off from a stationary position at the side of the road, what is the sponsibility of the driver?

A. The driver must ensure that it is safe and that he/she will not interfere with traffic approaching from any direction.

B. The driver must join other traffic as quickly as possible.

C. The driver must indicate his/her intention and then move off.

Previous | Review Questions | End Test | Next

estion 60 of 64

e remaining: 17:00

he appropriate reaction to this sign is to ...

362

A. stop, as the road is closed.

B. turn around as the road ends.

C. slow down and prepare to stop if necessary.

Previous | Review Questions | End Test | Next

stion 25 of 64

remaining: 18:34

e following is used to monitor traffic:

A. 5

B. 4

C. 3

Previous

Review Questions

End Test

Next

stion 21 of 64

e remaining: 18:47

you only have a learner's licence for a heavy motor vehicle, ...

) then there must be someone with you in the vehicle with the same driving

cence.

ii) you are not allowed to drive on a freeway.

(iii) no passengers are allowed with you in the vehicle.

SELECT THE CORRECT COMBINATION

A. All the above are correct

B. Only (i) is correct

C. Only (i) and (iii) are correct

Previous

Review Questions

End Test

Next

4

49:55

at type of heavy motor vehicle or combinations of motor vehicles are restricte
travel at a maximum speed of 80 km/h?

A. Any heavy motor vehicle carrying goods

B. Only vehicles carrying goods which belong to the government and traffic police

C. An articulated motor vehicle of which the gross combination mass of truck-tractor exceeds 9 000 kg.

Previous

Review Questions

End Test

estion 42 of 64

ne remaining: 17:48

This sign indicates to the driver of a vehicle that ...

A. the maximum speed limit in the right-hand lane is 80 km per hour.

B. the minimum speed limit in the right-hand lane is permanently 80 km per hour.

C. the minimum speed limit in the right-hand lane is temporarily 80 km per hour.

Previous

Review Questions

End Test

stion 14 of 64

remaining: 19:06

n which side of the roadway may you drive if the roadway is wide enough withou
ndangering other traffic?

A. A driver shall drive on the left side of the roadway.

B. A driver may encroach or drive on the right-hand of a roadway if the car in
front is driving slowly.

C. A driver may drive on the right-hand side provided there is no traffic.

Next ▶

End Test

Review Questions

◀ Previous

estion 19 of 64

e remaining: 18:54

lo person driving a vehicle on a public road may ...

A. leave a vehicle unattended without applying its parking brake to prevent it from moving from the position in which it was left.

B. leave a vehicle unattended without applying its parking brake to prevent it from moving further than 30 cm from the position in which it was left.

C. leave a vehicle unattended without applying its service brake to prevent it from moving.

Previous | Review Questions | End Test | Next

stion 6 of 64

e remaining: 19:28

hen driving a motor vehicle, what is the minimum safe following distance to
aintain when following another vehicle?

A. A distance determined by means of the two second rule.

B. A driver may drive as close as possible so that overtaking will be easier.

C. Five metres at 100 km/h.

Previous

Review Questions

End Test

Next

9K reviews ⓘ | ZA made ⓘ | Rated for 3+ ⓘ

Install

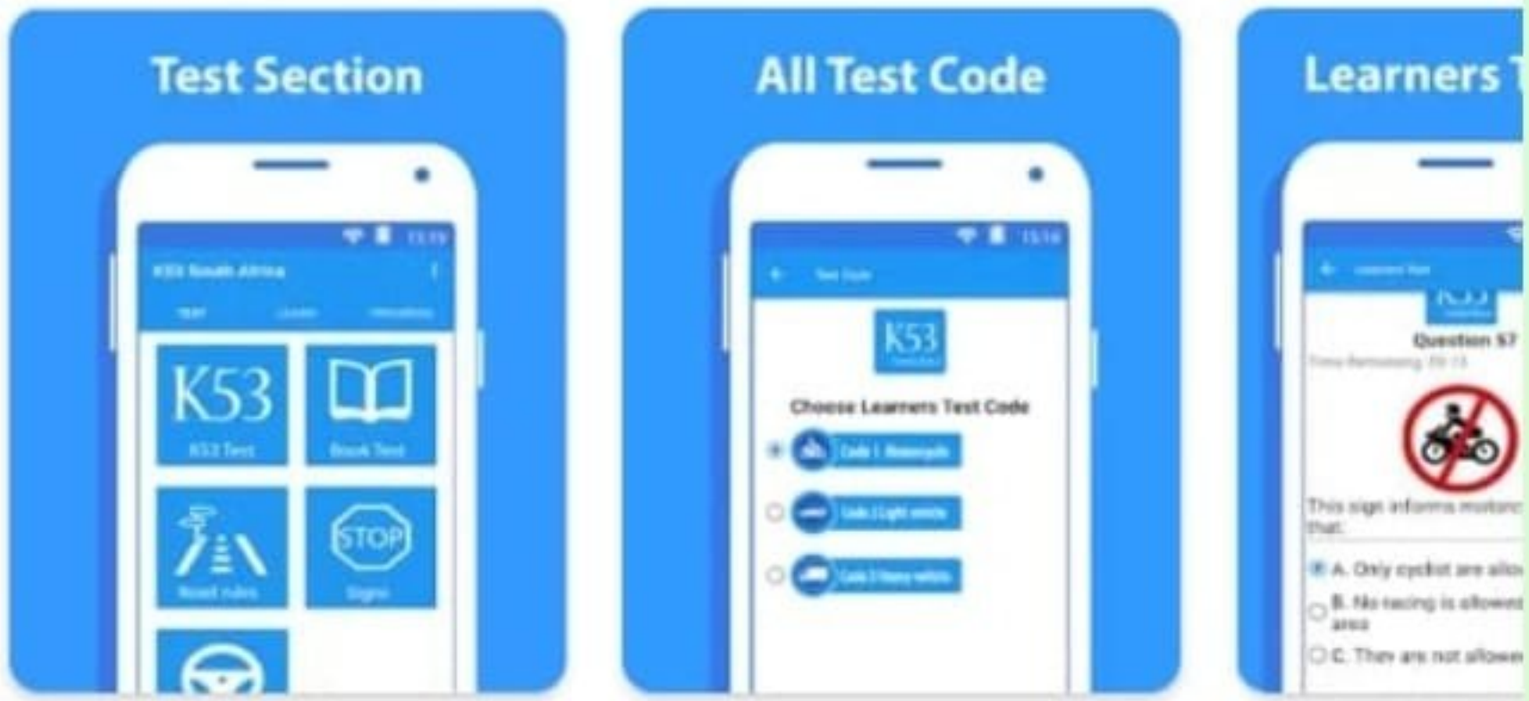


About this app →

K53 south africa a learner's and driver's license app.

#7 top free in education

Auto & vehicles

Driver's education

Data safety

14:03

Please download this app to go with that memo... You will practice here to write your Learners

14:03

uestion 63 of 64

ne remaining: 16:52

This sign indicates to a driver that a high speed exit is ... ahead.

A. 1 km

B. 100 meters

C. 10 meters

Previous

Review Questions

End Test

Next

4

49:59

eavy motor vehicle must be equipped with an efficient exhaust silencer, which

A. does not have to be maintained, as long as it does not make a noise.

B. must be so maintained that it does not cause a vibration in the cab.

C. must be so maintained that the exhaust gas or smoke does not leak into the driving cab or passengers compartment of the vehicle.

Review Questions

End Test

**Before this road marking one would usually find the following sign ...**

538

A. a marked pedestrian crossing ahead.

B. you must be on the lookout for cyclists.

C. level crossing ahead.



estion 27 of 64

e remaining: 18:28

When is overtaking prohibited?

A. When approaching any place where passing could cause a hazard to traffic approaching from the opposite direction.

B. When passing a school.

C. When driving at night.

Previous

Review Questions

End Test

Next

stion 24 of 64

remaining: 18:38

en is it permissible to allow a portion of the body to protrude beyond a vehicle?

A. When it is hot and the driver's window is open.

B. Only for the driver to give a hand signal.

C. Only passengers may have a portion of their body protruding.

Previous | Review Questions | End Test | Next

uestion 46 of 64

ne remaining: 17:37

Which of the following statements is correct? A silencer ...

A. need not be fitted.

B. with a small hole is acceptable.

C. must be fitted to a vehicle to restrict engine noise to acceptable levels.

Previous

Review Questions

End Test

Next

stion 15 of 64

remaining: 19:04

order to draw attention, the background of temporary signs is usually ...

A. white.

B. yellow.

C. red.

Next

End Test

Review Questions

Previous

estion 49 of 64

ne remaining: 17:30

What is the function of a clutch?

A. It is used to disconnect the engine from the transmission.

B. It is used to reduce the speed of a vehicle.

C. It is used to freewheel down a hill.

Previous | Review Questions | End Test | Next

estion 44 of 64

e remaining: 17:42

his sign indicates ...

A. how much toll you will have to pay.

B. which way all vehicles have to go.

C. a toll road and an alternative for a toll road.

Previous

Review Questions

End Test

Next

uestion 61 of 64

me remaining: 16:57

Trailers of which the gross vehicle mass does not exceed 10000 kg ...

A. shall be fitted with yellow reflective material to the sides and the rear of the vehicle.

B. shall be fitted with yellow reflective material to the sides of the vehicle only.

C. are not required to fit yellow reflective material to the vehicle.

Previous | Review Questions | End Test | Next

uestion 57 of 64

ne remaining: 17:09

You may not ...
(i) run the engine of your vehicle unattended.
(ii) use your vehicle without a cap on the fuel tank.
(iii) spin the wheels of your vehicle when pulling off.
SELECT THE CORRECT COMBINATION

2R134

A. Only (i) and (ii) are not allowed

B. Only (ii) is not allowed

C. None of the above are allowed

Previous | Review Questions | End Test | Next

You choose "Pass to the left or right of the obstruction, as indicated by the sign". Or you choose "Regulatory sign"

19:16

Check the name on notes

19:17

estion 29 of 64

e remaining: 18:22

his sign warns a driver that ...

A. a side road junction from the right is ahead.

B. a skew T-junction is ahead.

C. a T-junction is ahead.

Previous

Review Questions

End Test